Topic : Clock

Pre-Assessment:

A watch which gains uniformly, is 5mins slow at 8 o'clock in the morning on Sunday and it is 5min 48 sec fast at 8 P.M on the following Sunday. When was it correct?

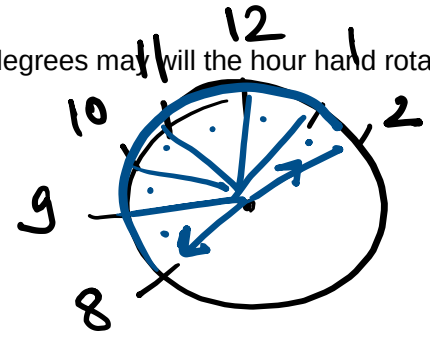
_____

Concept:

Type1:

An accurate clock shows 8 o'clock in the morning. Through how degrees may will the hour hand rotate when the clock shows 2 o'clock in the afternoon?

$6 \times 30^\circ = 180^\circ$



A. 144°

B. 150°

C. 168°

D. 180°

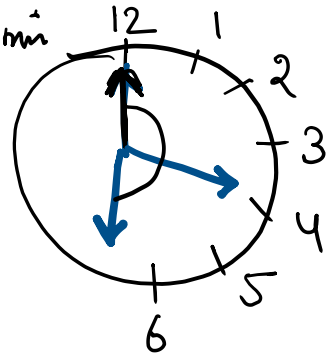
6:20

Imp:

A clock is started at noon. By 10 minutes past 5, the hour hand has turned through:

$\theta = 30^\circ \times 5 + \frac{1}{2} \times 10\text{min}$

$\theta = 155^\circ$



A. 145°

B. 150°

C. 155°

D. 160°

6:20

Hour hand

$6 \times 30^\circ + \frac{1}{2} \times 20$

$180 + 10 = 190^\circ$

Type2:

At what time, in minutes, between 3 o'clock and 4 o'clock, both the needles will coincide each other?

A. $5\frac{1}{11}''$

B. $12\frac{4}{11}''$

C. $13\frac{4}{11}''$

D. $16\frac{4}{11}''$

Type3:

At what angle the hands of a clock are inclined at 15 minutes past 5?

A. $58\ \frac{1}{2}^\circ$

B. 64°

C. $67\ \frac{1}{2}^\circ$

D. $72\ \frac{1}{2}^\circ$

At 3:40, the hour hand and the minute hand of a clock form an angle of:

A. 120°

B. 125°

C. 130°

D. 135°

$$\theta = \left|30 \times 3 - \frac{11}{2} \times 40\right|$$

Type 4:

The angle between the minute hand and the hour hand of a clock when the time is 4.20, is:

A. 0°

B. 10°

C. 5°

D. 20°

Type 5:

(7 - 8)

At what time between 7 and 8 o'clock will the hands of a clock be in the same straight line but, not together?

A. 5 min. past 7

B. $5\frac{2}{11}$ min. past 7

C. $5\frac{5}{11}$ min. past

D. $5\frac{3}{11}$ min. past 7

Ans

$\theta = |30H - \frac{11}{2}m|$

$180 = 30 \times 7 - \frac{11}{2} \times m$

$\frac{11}{2}m = 30 \Rightarrow m = \frac{60}{11} = 5\frac{5}{11}$ min

Question

At what time between 4 and 5 clock will the hands of a clock be at right angle?

M > H

4 - 5

$38\frac{3}{11}$ minutes past 4

$38\frac{9}{11}$ minutes past 4

$38\frac{2}{11}$ minutes past 4

$38\frac{5}{13}$ minutes past 4

$90^\circ = 30 \times 4 - \frac{11}{2}m$

$90 = 120 - \frac{11}{2}m$

$\frac{11}{2}m = 30 \Rightarrow m = \frac{60}{11}$

$m = 5\frac{5}{11}$

$\theta = \frac{11}{2}m - 30H$

$90 = \frac{11}{2}m - 120$

$\frac{420}{11} = 38\frac{2}{11}$

Question:

At what time between 3 and 4 will the hands of a clock 4 minutes apart?

1. 12 min past 3 & $20\frac{8}{11}$ past 3
2. 13 min past 3 & $25\frac{8}{11}$ past 3
3. 12 min past 3 & $20\frac{8}{11}$ past 3
4. 13 min past 3 & $19\frac{8}{11}$ past 3

Hint = $\theta = 24^\circ$

$24 = 30 \times 3 - \frac{11}{2}m$

$\theta = 12^\circ$

$24 = \frac{11}{2}m - 30 \times 3$

$\theta = 20\frac{8}{11}$

Campusmonk

Type 6:

Question: [Unitary method]

Mohit saw the clock when it was set right at 8 a.m. The clock gains 5mins in an hour. What time will it shows at 8p.m at the same day?

9 pm — Ans — 9 p.m Ans

1 hr — + 5min

12 hr → + 60min

Mohit observe that a watch loses 5 seconds in one hour which was right set at 7 a.m. What time will it show at 2p.m on the same day?

1:59:25 Ans

1 hr → (-) 5sec

7 hr → 35 sec

Question:

A watch is showing right time at 9 P.M. This watch gains 10 minutes in every 24 Hours. What will be the time shown next day by the watch when the correct time is 2 A.M?

2:2:05 Am

24 Hr = + 10 mins

1 Hr (5hrs) = $\frac{10}{24} \times 5 = \frac{25}{12}$

2 $\frac{1}{12}$ = + 2 mins 5 sec

Type 7:

A watch which gains uniformly, is 5mins slow at 8 o'clock in the morning on Sunday and it is 5min 48 sec fast at 8 P.M on the following Sunday. When was it correct?

A watch which gains uniformly, is 5mins slow at 8 o'clock in the morning on Sunday and it is 5min 48 sec fast at 8 P.M on the following Sunday. When was it correct?

Rule

24 → 2
168 → 12
+ 4
48 → 4
10 60 → 5

Sun 8 am — 8 pm

8 am → 5 min (−)
8 pm → 5 min 48 (+)

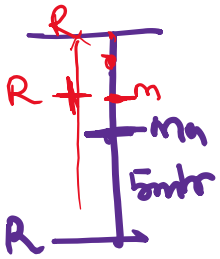
180 Hr → 10 min 48 sec

54 mins gained in 180 Hr
5

1 min → $\frac{180 \times 5}{54}$ Hr

5 min → $\frac{180}{54} \times 5 \times 5$ (10)

$= \frac{250}{3} = 83\frac{1}{3}$ Hrs



Sunday 8 am → 3 days + 114 hr 20 mins (72 Hr) → Wed 8 am

7 : 20 pm on Wednesday